Shamsi School

Shamsi Society Campus Boy's Shift

Final Term Exam 2025

Class: IV Subject: Mathematics Time: 3 hours

Student's Name:_____ Section: _____ Roll #: _____ Date: _____

Final Term	Objective Marks	Activity	Subjective Marks	Total
Marks Obtained				
Max. Marks	25	5	70	100

Check by: _____

Re-check by:_____

Objective: (Marks:25)

Q1) Choose the correct answers: **/10**

1) In numeral four hundred forty three thousand and six hundred and fifty seven.

a) 4,43,657 b) 443,657 c) 44,3657

2) 78,546 is more than 78,000 by:

a) 548 b) 584 c) 546

3) Angles greater than 90° but less than 180° are called:

a) Straight b) Acute c) Obtuse

4) What number is 100 less than 53,600?

a) 53,600 b) 53,400 c) 53,500

5) 145 × 30 is:

a) 4250 b) 4350 c) 4450

6) 168 ÷ 4 is:

a) 52 b) 48 c) 42

7) The Roman numeral for 19 is:

a) XIX b) IXX c) XXI

8) The successor of 99,999 is:

a) 1,00,000 b) 1,00,001 c) 99,999

9) The predecessor of the smallest 3-digit number is a ___ digit number.

a) 1 b) 2 c) 3

10) Angles equal to 90° are called:

a) Right b) Acute c) Obtuse

Q2) Fill in the blanks **/5**

1. A _____ has four sides equal in length.

2. The greatest 4-digit number is:_____

3. What is the period and place of 9 in 6,985,076?

4. Write the short form of: 40,000 + 3,000 + 200 + 70 + 5 = _____

5. 8/100 in decimal form is: _____

Q3) What are the missing numbers in the pattern? **/5**

a) 0.3, 0.6, 0.9, 1.2, _____ , _____

b) 2.22, 2.24, 2.26, _____ , _____ , 2.32, 2.34

c) 7.382, 7.362, 7.342, 7.322, _____ ,

d) 0.563, 0.560, 0.557, 0.554, _____ , _____

e) 3.516, 3.514, 3.512, _____ , 3.508, 3.506, 3.504

Q4) Fill in the answers of each crossword puzzle so that the equations are true. **/5**

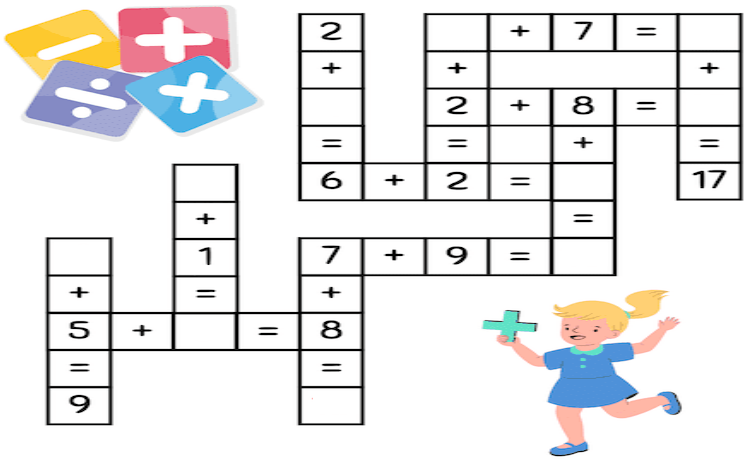

SUBJECTIVE (70)

ARITHEMATIC (Marks: 40)

Note: Attempt any eight (8) in all. Each question carry equal marks.

Q1) Multiply: (any 2)

(a) 145×36 (b) 569×34 (c) 2.7×2 (d)15.48×4

Q2) Divide: (any 2)

(a) 2.18 ÷ 2 (b) 6078÷4 (c) 71.85 ÷ 5 (d) 1362÷6

Q3) Round each decimal to the nearest whole number.

S.NO	WHOLE NUMBER	NEAREST 1 DECIMAL PLACE	NEAREST 2 DECIMAL PLACES
1	9.4 _____	45.04 _____	16.986 _____
2	65.8 _____	2.567 _____	2.185 _____

Q4) Express each of the fractions as a decimal (any 2)

(a) $\frac{4}{5}$ (b) $5\frac{3}{4}$ (c) $\frac{3}{20}$

Q5) Express each of the following as a fraction or a mixed number in its simplest form. Leave each answer in its simplest form (any 2).

(a) 0.25 (b) 5.45 (c) 2.04 (d) 0.8

Q6) Add: Find the sum of each pair of numbers (any 2)

(a) 28.09 and 3.65 (b) 5.7 and 6.24 (c) 2.63 and 8.5 (d) 1.95 and 8.67

Q7) Find the difference between each pair of numbers (any 2)

(a) 30 and 5.84 (b) 2.09 and 1.32 (c) 38.9 and 3.65 (d) 0.17 and 0.04

Q8) A farmer had 3096 carrots. He packs them equally into 3 boxes. How many carrots are there in each box?

Q9) Subtract:

(a) Subtract 0.08 from 1.23 (b) Subtract 2.19 from 22.08

GEOMETRY (Marks 30)

Note: Attempt any five (5) questions. Each question carry equal marks.

Q1) Draw the following figures (any 1)

(a) 4 cm by 4 cm square (b) 3 cm by 7 cm rectangle

Q2) Find the length or breadth of each rectangle (any 1)

24 cm

Perimeter = 68 cm ?

?

Perimeter = 146 m 28 m

Q3) Find the length of one side of each square

S.NO	Perimeter	Length
1	44 cm	
2	32 cm	
3	68 m	
4	176 m	
5	140 cm	
6	456 cm	

Q4) Find the length or breadth of each rectangle. (Any 1)

L = 5 cm

Area = $15cm^2$ b=?

L = ?

Perimeter = $36\ m^2$ 4 m

Q5) Write the time using the 24-hour clock. (Any 3)

a) 4:55 P.m. b) 12:05 am c) 5:55 P.m. d) 9.30 am

e) 12 noon f) 6:00 P.m.

Q6) John went to the park to exercise. He cycled for 1 hr 30 min and ran for another 55 minutes. It was $12:15$ when she finished her exercise.

a) What time did she start to exercise?

b) Convert 55 minutes into seconds.



Q7) What is the time of the train on the clock?

a) A train left the station at _____ P.m.

b) The time in the 24-hour clock is _____.

Q8) Write definitions of the following with diagram. (any 1)

a) Square

b) Rectangle

Q9) The line graph shows the monthly rainfall of a town from August to December.

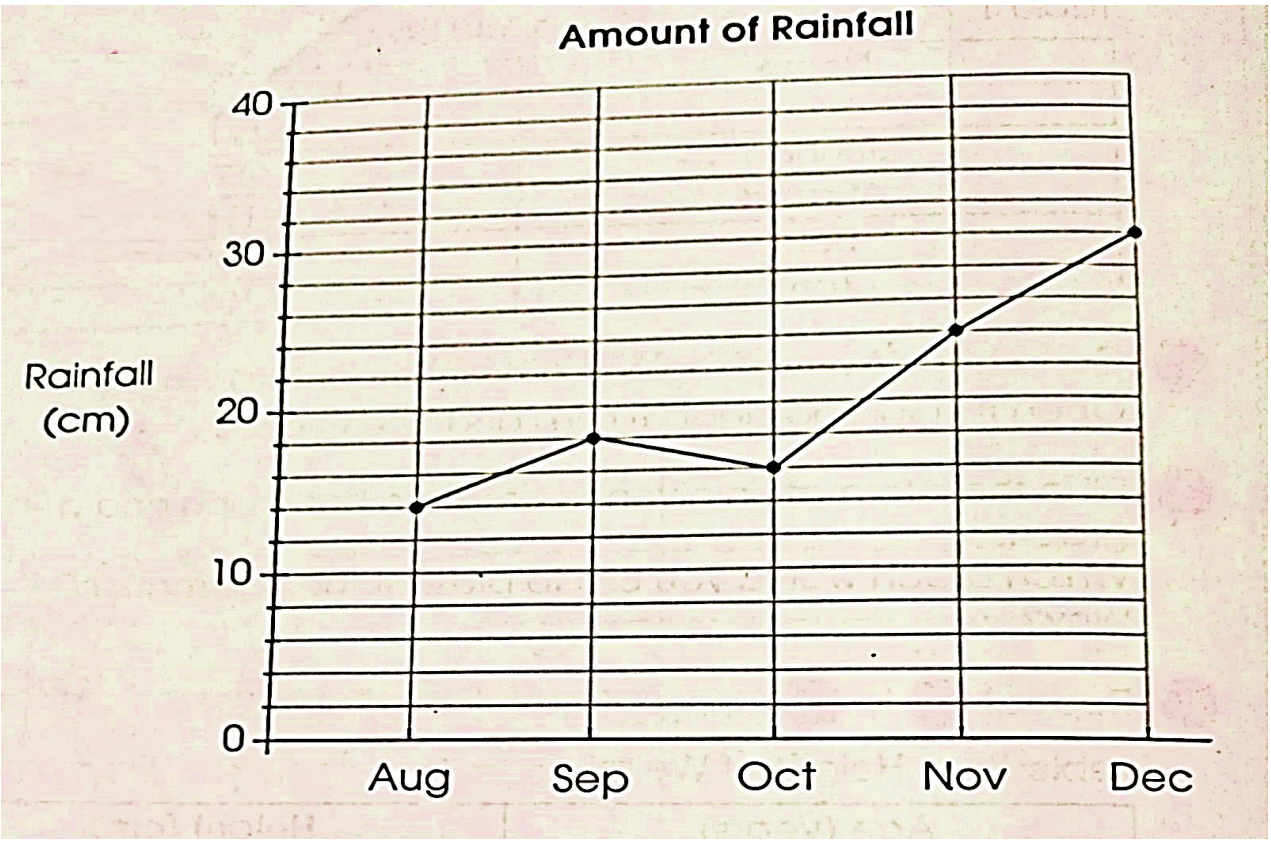

a) Which was the wettest month?

b) Which was the driest month?

c) What is the difference in the amount of rainfall between the wettest month and the driest month?

d) How much more rainfall was recorded in November than in October?