Shamsi School

Shamsi Society Campus Boy's Shift

Final Term Exam 2025

Class V Subject: Mathematics Time: 3 hours

Student's Name:_____ Section: _____ Roll #: _____ Date: _____

Final Term	Objective Marks	Activity	Subjective Marks	Total
Marks Obtained				
Max. Marks	25	5	70	100

Check by: _____

Re-check by:_____

Objective: (Marks:25)

Q1) Choose the correct answers: **/10**

i) 0.203 × 10 is

a) 02.03 b) 2.003 c) 0.203

ii) Even numbers are multiples of:

a) 3 b) 2 c) 8

iii) Angle measured in

a) Scale b) Protractor c) Degree

iv) 49 ÷ 10 =

a) 49 b) 4.9 c) 0.49

v) A revolution is the mathematical name for a

a) Full turn b) Half turn c) None

vi) 0.143 L = _____ ml

a) 152 b) 143 c) 0.14.3

vii) Percent means

a) Percent b) Out of 190 º c) Out of 100

viii) The sum of angles in a triangle is

a) 180° b) 360° c) 90°

ix) Round off to nearest 10: 125

a) 115 b) 130 c) 110

x) 1000 more than 93880 is

a) 92780 b) 93880 c) 94880

Q2) Name the triangles: **/4**

a) A triangle with a right angle _____

b) A triangle that has two equal sides _____

c) A triangle that has three equal sides _____

d) A triangle that has an obtuse angle _____

Q3: Fill in the blanks **/6**

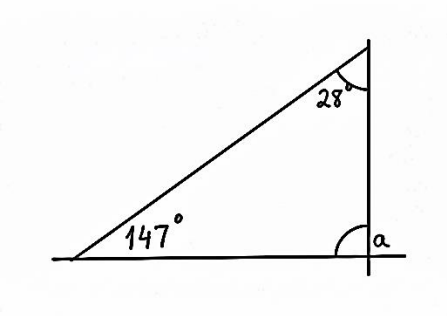

i) Opposite angles of a rhombus are _____

ii) In the given figure, ∠a = _____

iii) Average = ----------

iv) 0.315 × 100 = _____

v) 3.2 ÷ 80 = _____

vi) When two non-parallel rays meet at a common point, an _____ is formed.

Q4: Express each of the following as a percentage: **/5**

a) $\frac{6}{100}$ = _____

b) $\frac{14}{100}$ = _____

c) 0.2 = _____

d) 0.08 = _____

e) $\frac{5}{10}$ = _____

SUBJECTIVE (70)

ARITHEMATIC (Marks: 48)

Note: Attempt any eight (8) questions. Each question carry equal marks.

Q1. Multiply (any 2)

a) 9.78 × 10
b) 8.4 × 1000
c) 0.9 × 300
d) 2.62 × 2000

Q2. Divide (any 2)

a) 0.15 ÷ 10 = _____
b) 125 ÷ 1000 = _____
c) 33.6 ÷ 800 = _____
d) 8 ÷ 4000 = _____

Q3. Convert (any 2)

a) 2.4 m = _____ cm
b) 6 L 853 ml = _____ L
c) 0.094 kg = _____ g
d) 1 kg 225 g = _____ kg
e) 0.143 L = _____ ml

Q4) 4.48 kg of flour is mixed with 2.27 kg of sugar.The mixture is then packed equally into 5 packets. What is the mass of each packet in kg?

Q5) Express each fraction as a percentage (any 2):

a) $\frac{4}{5}$ =
b) $\frac{150}{200}$
c) $\frac{3}{4}$

Q6) Mrs. Ahmed bought 6 different dresses.The average cost of each dress was $ 40.70.How much did Mrs. Ahmed pay for the 5 dresses?

Q7) Express each of the following as a decimal (any 2):

a) 18%
b) 9%
c) 55%
d) 30%

Q8) Ann drinks an average of 1.8 L of water a day.How much water does she drink in 30 days?

Q9) Express each of the following as a fraction in its simplest form (any 2):

a) 50%
b) 64%
c) 3%
d) 92%

Q10) Rope A is 3.24 m longer than Rope B. Rope A is 5.12 m long. What is the total length of the two ropes?

Q11) The table shows the amount of money Bada saved from January to March. What was Bala's average monthly savings?

Month	January	Feburary	March
Savings	$ 8	$ 10	$ 15

GEOMETRY (Marks 12)

Note: Attempt any two (2) questions. Each question carry equal marks.

Q1) Draw each of the following triangles: (Any one)

(a) Triangle ABC, where BC = 6 cm, AB = 7 cm, and ∠ABC = 110°

(b) Triangle JKL, where KL = 8 cm, JK = 6 cm, and ∠JKL = 90°

Q2) Find the unknown marked angle in each triangle. (Any two)

a)

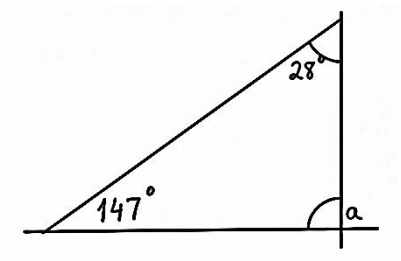

c)

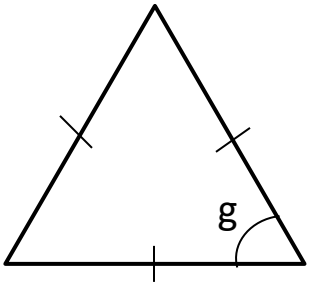

b)

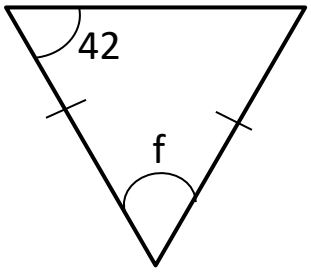

Q3) Draw and label each of the following four-sided figures:

a) A Rhombus MNPQ of side 4 cm, where ∠MNP = 130° and ∠NPQ = 50°

Q4) Identify each of the following 4-sided figures.

a) b) c) d)

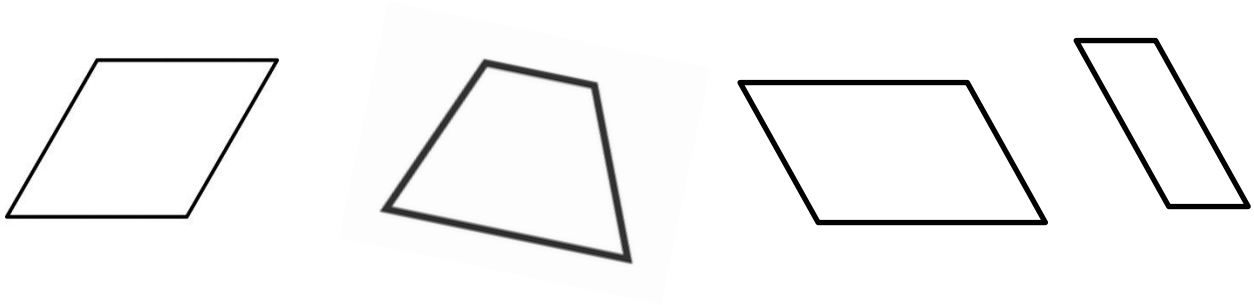

STATISTICS (Marks 10)

Attempt any one (1) question. Each question carries 10 marks.

Q1) What is the probability of getting 6 when a die is rolled?

Q2) Complete the table by writing in events with the following chances of happening:

CHANCE	EVENT
Impossible	
Unlikely	
Even	
Likely	
Certain	