Shamsi School
Shamsi Society Campus (Boys' Shift)

Final Examination (2024-25)
Class: V
Subject: Mathematics

Name: _____Sec: ____Roll #: _____ Invigilator's Sign: ___ T.Marks: 100

OBJECTIVE

Max. Marks: 20

Q.1) What are the missing numbers? /03

a) 2 : 5 = _____ : 10

b) 9 : 12 : = 3 : _____

c) 3 : 12 : 18 = -1: _____ : _____

d) 10 : 8 : 12 = _____ : 4 : _____

Q.2) Convert: /05

a) 0.83 m = _____ cm

b) 6.6 Km = _____ m

c) 559 cm = _____ m

d) 3016 m = _____ Km

e) 0.09 Kg = _____ g

Q.3) Express each of the following as a percentage. /02

a) $\frac{6}{100}$ = _____ %

b) $\frac{70}{100}$ = _____ %

c) $\frac{3}{10}$ = _____ %

d) $\frac{5}{10}$ = _____ %

Q.4) Identify each of the following triangle. /02

a) 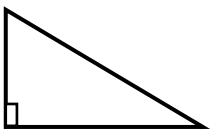

(b) 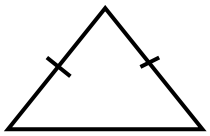

(c) 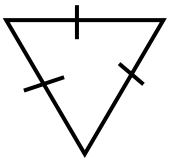

(d)

(a) _____ (c) _____

(b) = _____ (d) _____

Q.5) Name the triangles. **/02**

a) A triangle with a right angle = _____

b) A triangle that has three equal sides = _____

c) A triangle that has two equal sides = _____

A triangle that has an obtuse angle = _____

Q.6) Identify each of the following 4- sided figures. Explain your answers. **/4.5**

a)



ANS:_____

(b)

ANS: _____

c)

d)

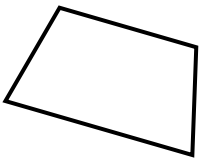

ANS:_____

(d)

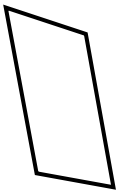

ANS: _____

Q.3) **/1.5**

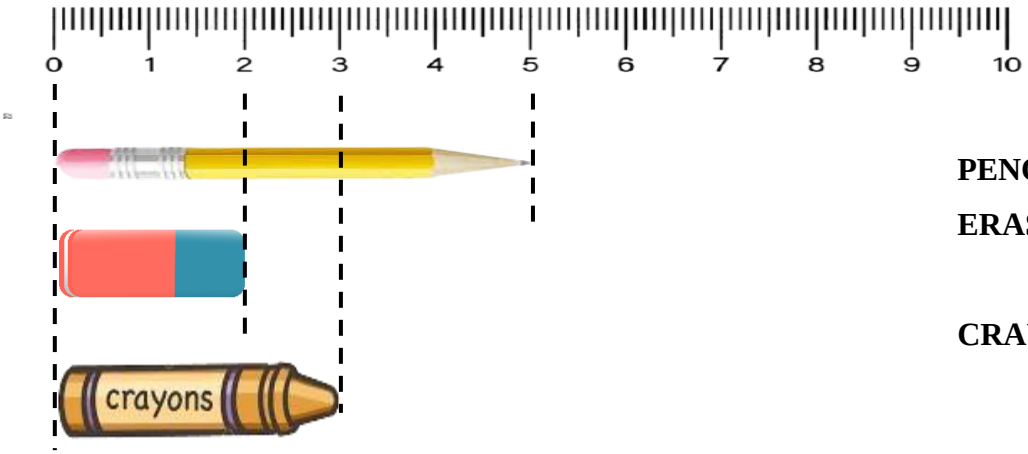

PENCIL

ERASER

CRAYON

The ratio of the length of the crayon to the length of the eraser to the length of the pencil is

_____ : _____ : _____

Shamsi School
Shamsi Society Campus (Boys' Shift)

Final Examination (2024-25)
Subject: Mathematics
SUBJECTIVE **Max. Marks:80**

Q.1) Multiply them: (any four) **/08**

a) $\frac{2}{5} \times \frac{1}{4}$ b) $2\frac{1}{5} \times 5$

c) 1.12×1000 d) 0.38×2000

d) 1.027×40 f) 3.82×90

Q.2) Divide them: (any four) **/08**

a) $25.3 \div 10$ b) $24.9 \div 100$

c) $41 \div 1000$ d) $768 \div 6000$

e) $2.1 \div 70$ f) $0.56 \div 80$

Q.3) Express each of the following as a percentage: **/06**

a) 0.02 b) 0.08 c) 0.62

Q.4) Find the value of each of the following: **/06**

a) 15% of 20 b) 5% of 960

b) 60% of 300 d) 85% of 60

Q.5) Express each of the following as a decimal : **/06**

a) 17% b) 9% c) 30%

Q.6) Express the following in minutes: **/06**

a) $\frac{3}{4}$ hr b) $5\frac{8}{15}$ hr c) $1\frac{7}{10}$ hr

Q.7) A class has 20 girls and 16 boys 30% of the girls go to school by bus. How many girls in the class go to school by bus? **/03**

Q.8) 2.48 Kg of flour is mixed with 1.27 LG of sugar. The mixture is then packed equally into 15 packets. What is the mass of each packet in Kg? **/03**

Q.9) A dress costs $ 54. Late buys the dress at a discount of 28%. How much does Kate pay for the dress? **/03**

ALGEBRA SECTION

Q10) Find the value of 'y': (any four) **/08**

i) 5y + 15 = 64

ii) 9y = 72

iii) 7y + 9 = 44

(iv) 12 y – 15 = 45

(v) 3y = 27

Q11) Write an algebric expression for each of the following. **/04**

i) Add 5 to a

ii) 4 more than c

(iii) Subtract from 7

(iv) 6 less than 9

Q12) Bala is 't' year old now. Bala's cousin is twice as old as Bala. How was Bala's cousin 2 years age? **/03**

GEOMETRY SECTION

Q12) Write definition of the following (any two) **/04**

i) Equilateral triangle

ii) Isosceles triangle

(iii) Scalene triangle

Q13) Draw each of the following triangles. **/04**

i) Triangle ABC where BC = 6cm, AB = 7cm and $\angle ABC = 110°$

OR

Find the unknown angle in each triangle.

i)

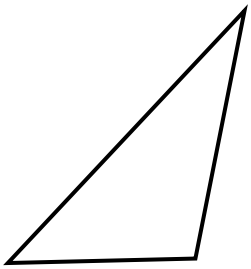

(ii)

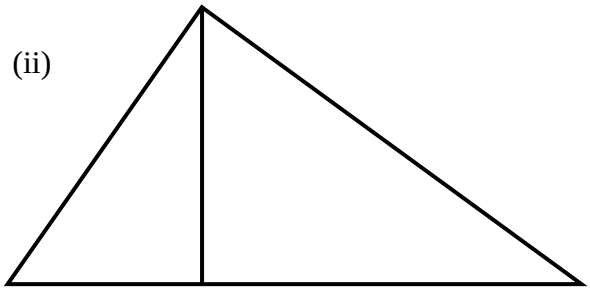

Q14) Draw each of the following four – sided figures. **/04**

i) Parallelogram EFGH, where EF = 5 cm, FG = 3 cm and $\angle EHG = 70°$

Q15) Find the unknown marked angles in each parellelogram. **/04**

i)

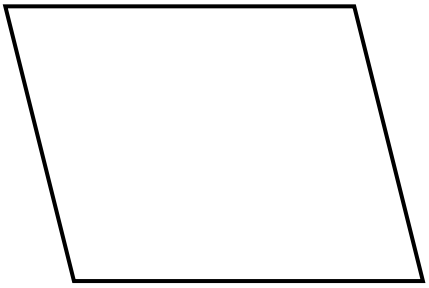
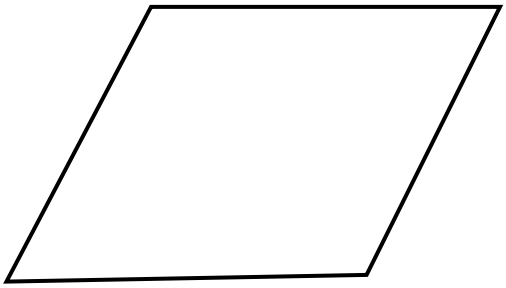
(ii)